Chapter 23
Gauss' Law

In this chapter we will introduce the following new concepts:

The flux (symbol Φ) of the electric field
Symmetry
Gauss' law

We will then apply Gauss' law and determine the electric field generated by:
An infinite, uniformly charged insulating plane

An infinite, uniformly charged insulating rod
A uniformly charged spherical shell
A uniform spherical charge distribution

We will also apply Gauss' law to determine the electric field inside and outside charged conductors.

Flux of a Vector. Consider an airstream of velocity $\vec{v}$ that is aimed at a loop of area A . The velocity vector $\vec{v}$ is at angle θ with respect to the loop normal $\hat{n}$. The product $\Phi = vA\cos\theta$ is known as the **flux**. In this example the flux is equal to the volume flow rate through the loop (thus the name flux).

Note 1 : Φ depends on θ. It is maximum and equal to vA for $\theta = 0$ ($\vec{v}$ perpendicular to the loop plane). It is minimum and equal to zero for $\theta = 90°$ ($\vec{v}$ parallel to the loop plane).

Note 2 : $vA\cos\theta = \vec{v}\cdot\vec{A}$. The vector $\vec{A}$ is parallel to the loop normal and has magnitude equal to A.

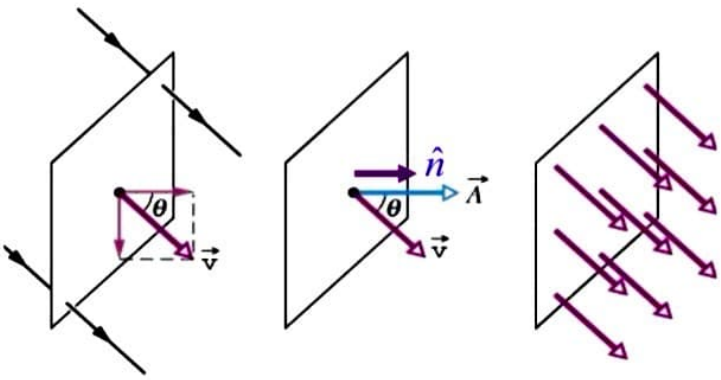

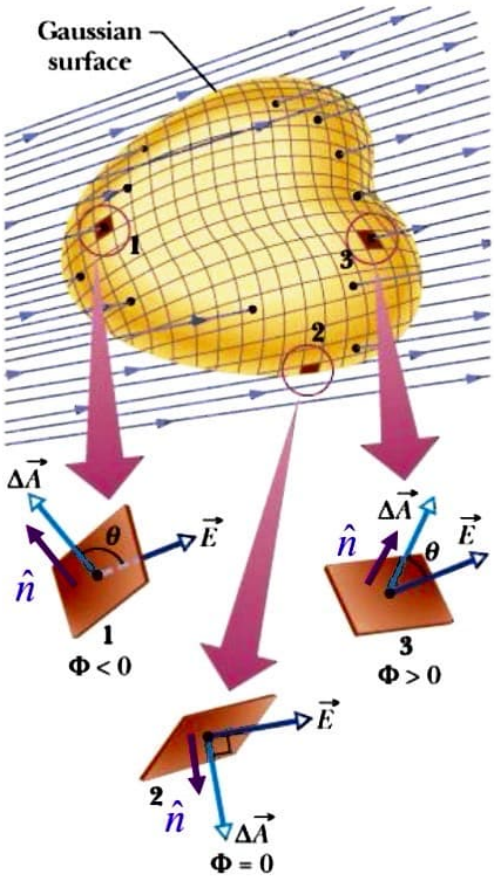

$$\Phi = \oint \vec{E} \cdot d\vec{A}$$

Flux of the Electric Field.

Consider the closed surface shown in the figure. In the vicinity of the surface assume that we have a known electric field $\vec{E}$. The flux Φ of the electric field through the surface is defined as follows:

1. Divide the surface into small "elements" of area ΔA.
2. For each element calculate the term $\vec{E} \cdot \Delta\vec{A} = EA\cos\theta$.
3. Form the sum $\Phi = \sum \vec{E} \cdot \Delta\vec{A}$.
4. Take the limit of the sum as the area $\Delta A \to 0$.

The limit of the sum becomes the integral:

$\Phi = \oint \vec{E} \cdot d\vec{A}$ Flux SI unit: $\mathrm{N \cdot m^2 / C}$

Note 1 : The circle on the integral sign indicates that the surface is closed. When we apply Gauss' law the surface is known as "Gaussian."

Note 2 : Φ is proportional to the net number of electric field lines that pass through the surface.

(23-3)

Gauss' Law

Gauss' law can be formulated as follows:

The flux of $\vec{E}$ through any closed surface $\times\, \varepsilon_0$ = net charge q_{enc} enclosed by the surface.

In equation form: $\varepsilon_0 \Phi = q_{\text{enc}}$ Equivalently: $\varepsilon_0 \oint \vec{E} \cdot d\vec{A} = q_{\text{enc}}$

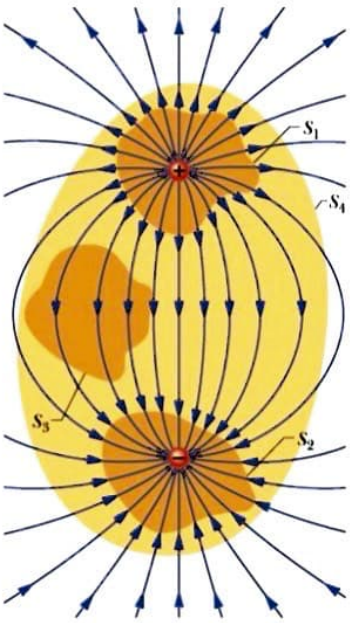

$$\varepsilon_0 \Phi = q_{\text{enc}}$$

$$\varepsilon_0 \oint \vec{E} \cdot d\vec{A} = q_{\text{enc}}$$

Note 1 : Gauss' law holds for **any** closed surface. Usually one particular surface makes the problem of determining the electric field very simple.

Note 2 : When calculating the net charge inside a closed surface we take into account the algebraic sign of each charge.

Note 3 : When applying Gauss' law for a closed surface we ignore the charges outside the surface no matter how large they are.

Example :

Surface S_1 : $\varepsilon_0 \Phi_1 = +q$, Surface S_2 : $\varepsilon_0 \Phi_2 = -q$

Surface S_3 : $\varepsilon_0 \Phi_3 = 0$, Surface S_4 : $\varepsilon_0 \Phi_4 = -q + q = 0$

Note : We refer to S_1, S_2, S_3, S_4 as "Gaussian surfaces."

(23-4)

Coulomb's law $\leftrightarrow$ Gauss' law

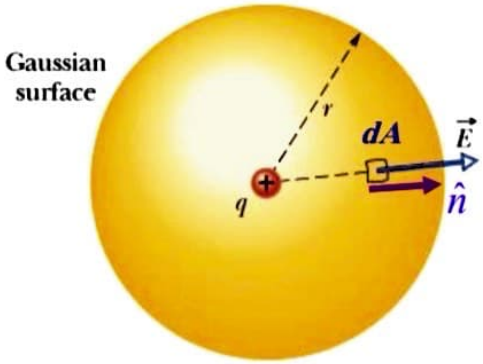

Gauss' Law and Coulomb's Law

Gauss' law and Coulomb's law are different ways of describing the relation between electric charge and electric field in static cases. One can derive Coulomb's law from Gauss' law and vice versa. Here we will derive Coulomb's law from Gauss' law. Consider a point charge q. We will use Gauss' law to determine the electric field $\vec{E}$ generated at a point P at a distance r from q. We choose a Gaussian surface that is a sphere of radius r and has its center at q.

We divide the Gaussian surface into elements of area dA. The flux for each element is:

$d\Phi = EdA\cos 0 = EdA$ Total flux $\Phi = \oint EdA = E\oint dA = E\left(4\pi r^2\right)$

From Gauss' law we have: $\varepsilon_0\Phi = q_{\text{enc}} = q \rightarrow 4\pi r^2\varepsilon_0 E = q \rightarrow E = \dfrac{q}{4\pi r^2\varepsilon_0}$

This is the same answer we got in Chapter 22 using Coulomb's law.

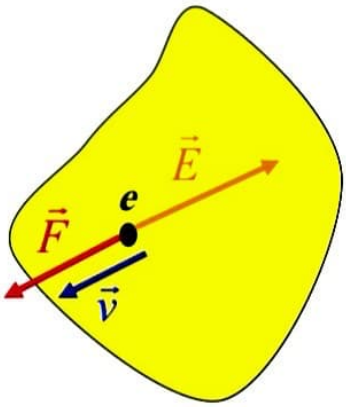

The Electric Field Inside a Conductor

We shall prove that the electric field inside a conductor vanishes. Consider the conductor shown in the figure to the left. It is an experimental fact that such an object contains negatively charged electrons, which are free to move inside the conductor. Let's assume for a moment that the electric field is not equal to zero. In such a case a nonvanishing force $\vec{F} = -e\vec{E}$ is exerted by the field on each electron. This force would result in a nonzero velocity $\vec{v}$, and the moving electrons would constitute an electric current. We will see in subsequent chapters that electric currents manifest themselves in a variety of ways:

(a) They heat the conductor.

(b) They generate magnetic fields around the conductor.

No such effects have ever been observed, thus the original assumption that there exists a nonzero electric field inside the conductor. We conclude that :

The electrostatic electric field $\vec{E}$ inside a conductor is equal to zero.

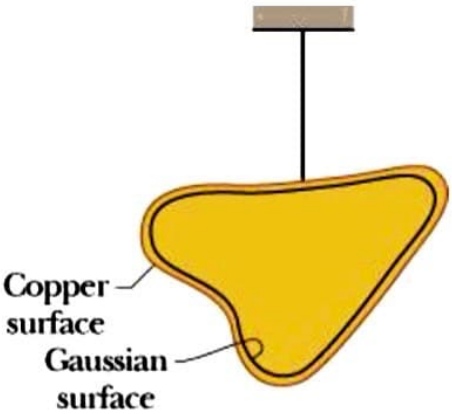

A Charged Isolated Conductor

Consider the conductor shown in the figure that has a total charge q. In this section we will ask the question: Where is this charge located? To answer the question we will apply Gauss' law to the Gaussian surface shown in the figure, which is located just below the conductor surface. Inside the conductor the electric field $\vec{E} = 0$.

Thus $\Phi = \oiint \vec{E} \cdot \Delta\vec{A} = 0$ **(eq. 1)**.

From Gauss's law we have: $\Phi = \dfrac{q_{\text{enc}}}{\varepsilon_0}$ **(eq. 2)**.

If we compare eq. 1 with eq. 2 we get $q_{\text{enc}} = 0$.

Thus no charge exists inside the conductor. Yet we know that the conductor has a nonzero charge q. Where is this charge located? There is only one place for it to be: On the surface of the conductor.

No electrostatic charges can exist inside a conductor.
All charges reside on the conductor surface.

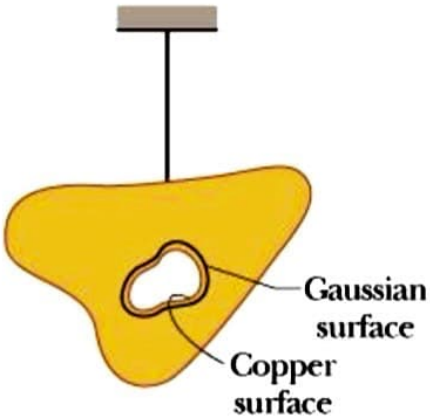

An Isolated Charged Conductor with a Cavity

Consider the conductor shown in the figure that has a total charge q. This conductor differs from the one shown on the previous page in one aspect: It has a cavity. We ask the question: Can charges reside on the walls of the cavity?

As before, Gauss's law provides the answer.

We will apply Gauss' law to the Gaussian surface shown in the figure, which is located just below the conductor surface. Inside the conductor the electric field $\vec{E} = 0$.

Thus $\Phi = \oiint \vec{E} \cdot \Delta\vec{A} = 0$ **(eq. 1)**.

From Gauss's law we have: $\Phi = \dfrac{q_{\text{enc}}}{\varepsilon_0}$ **(eq. 2)**.

If we compare eq. 1 with eq. 2 we get $q_{\text{enc}} = 0$.

Conclusion :

There is no charge on the cavity walls. All the excess charge q remains on the outer surface of the conductor.

$$E = \frac{\lambda}{2\pi\varepsilon_0 r}$$

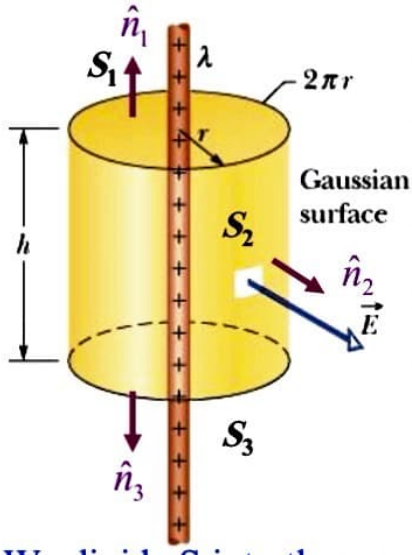

Electric Field Generated by a Long, Uniformly Charged Rod

Consider the long rod shown in the figure. It is uniformly charged with linear charge density λ. Using symmetry arguments we can show that the electric field vector points radially outward and has the same magnitude for points at the same distance r from the rod. We use a Gaussian surface S that has the same symmetry. It is a cylinder of radius r and height h whose axis coincides with the charged rod.

We divide S into three sections: Top flat section S_1, middle curved section S_2, and bottom flat section S_3. The net flux through S is $\Phi = \Phi_1 + \Phi_2 + \Phi_3$. Fluxes Φ_1 and Φ_2 vanish because the electric field is at right angles with the normal to the surface:

$\Phi_3 = 2\pi rhE\cos 0 = 2\pi rhE \rightarrow \Phi = 2\pi rhE$. From Gauss's law we have: $\Phi = \dfrac{q_{\text{enc}}}{\varepsilon_0} = \dfrac{\lambda h}{\varepsilon_0}$.

If we compare these two equations we get: $2\pi rhE = \dfrac{\lambda h}{\varepsilon_0} \rightarrow \quad E = \dfrac{\lambda}{2\pi\varepsilon_0 r}$. **(23-14)**

$$E = \frac{\sigma}{2\varepsilon_0}$$

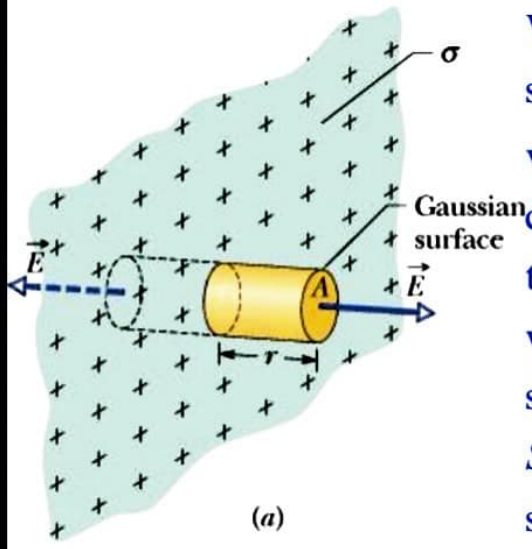

(a)

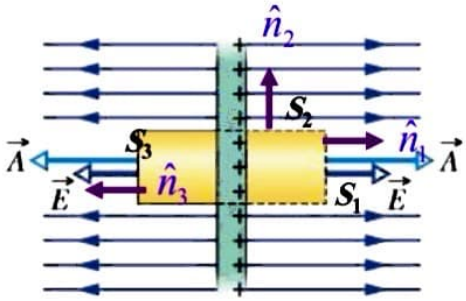

(b)

Electric Field Generated by a Thin, Infinite, Nonconducting Uniformly Charged Sheet

We assume that the sheet has a positive charge of surface density σ. From symmetry, the electric field vector $\vec{E}$ is perpendicular to the sheet and has a constant magnitude. Furthermore, it points away from the sheet. We choose a cylindrical Gaussian surface S with the caps of area A on either side of the sheet as shown in the figure. We divide S into three sections: S_1 is the cap to the right of the sheet, S_2 is the curved surface of the cylinder, and S_3 is the cap to the left of the sheet. The net flux through S is $\Phi = \Phi_1 + \Phi_2 + \Phi_3$.

$\Phi_1 = \Phi_2 = EA\cos 0 = EA. \quad \Phi_3 = 0 \quad (\theta = 90°)$

$\rightarrow \Phi = 2EA$. From Gauss's law we have: $\Phi = \dfrac{q_{\text{enc}}}{\varepsilon_0} = \dfrac{\sigma A}{\varepsilon_0}$

$\rightarrow 2EA = \dfrac{\sigma A}{\varepsilon_0} \rightarrow \quad E = \dfrac{\sigma}{2\varepsilon_0}$. **(23-15)**

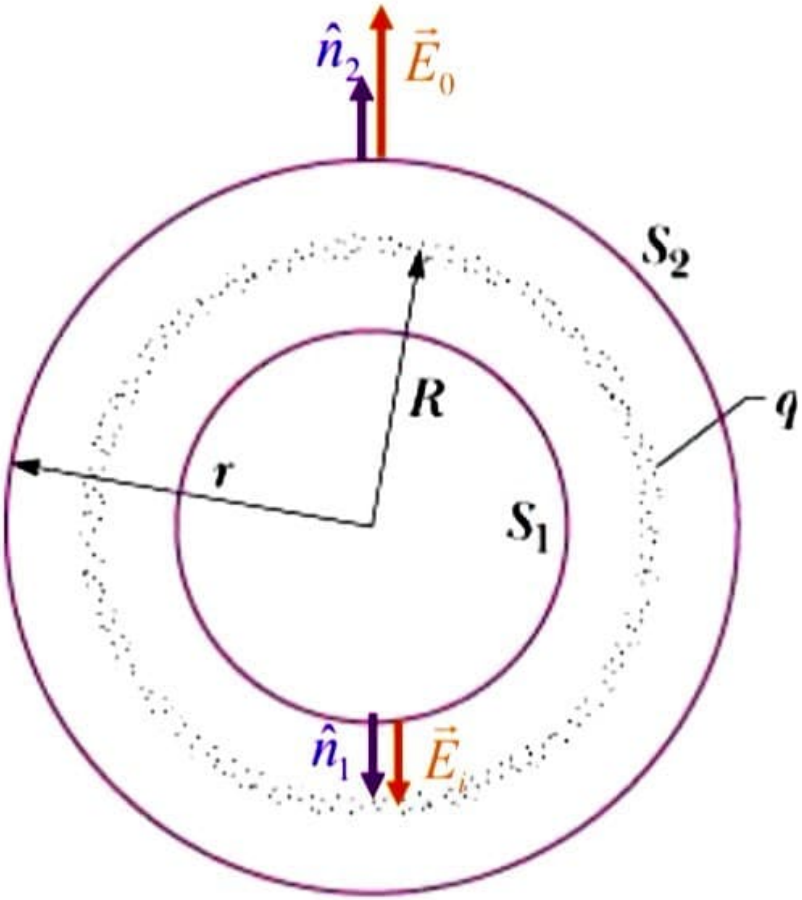

$$\boxed{E_i = 0}$$

$$\boxed{E_0 = \frac{q}{4\pi\varepsilon_0 r^2}}$$

(23-17)

The Electric Field Generated by a Spherical Shell of Charge q and Radius R

Inside the shell : Consider a Gaussian surface S_1 that is a sphere with radius $r < R$ and whose center coincides with that of the charged shell.

The electric field flux $\Phi = 4\pi r^2 E_i = \dfrac{q_{\text{enc}}}{\varepsilon_0} = 0.$

Thus $E_i = 0.$

Outside the shell : Consider a Gaussian surface S_2 that is a sphere with radius $r > R$ and whose center coincides with that of the charged shell.

The electric field flux $\Phi = 4\pi r^2 E_0 = \dfrac{q_{\text{enc}}}{\varepsilon_0} = \dfrac{q}{\varepsilon_0}.$

Thus $E_0 = \dfrac{q}{4\pi\varepsilon_0 r^2}.$

Note : Outside the shell the electric field is the same as if all the charge of the shell were concentrated at the shell center.